Legend training

How many triangles are in the figure?

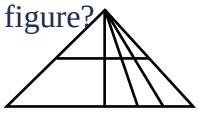

A 21 B 20 C 22 D 30

8 How many triangles are in the figure?



A 4 B 7 C 8 D 10

Answer: C

The number of triangles in the figure
= 4 x 2 = 8

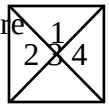

Legend training

How many triangles are in the figure?

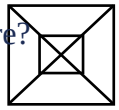

A 4 B 7 C 8 D 16

9 How many triangles are in the figure?

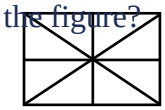

A 4 B 7 C 8 D 16

Answer: D

8 = number of triangles
Other triangles 8 Counting we get
Number of triangles = 16

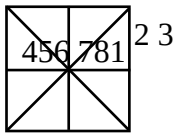

Legend training

How many triangles are in the figure?

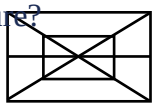

A 4 B 16 C 24 D 32

10 How many angles are in the figure?

A 21 B 22 C 23 D 24

Answer: A

= The number of angles in the figure $\frac{6 \times 7}{2}$ = 21

Legend training

How many angles are in the figure?

A 10 B 20 C 22 D 23

11 Points 5? How many line segments connect each line?

A 23 B 21 C 20 D 10

Answer: D

= 5 points, number of brown pieces $\frac{4 \times 5}{2}$ = 10

Legend training

Points? 4 How many line segments connect each line?

A 23 B 21 C 20 D 6

12 Cities? 6 How many roads connect Beni?

A 23 B 21 C 20 D 15

Answer: D

= 6 cities, number of roads built $\frac{5 \times 6}{2}$ = 15

Legend training

Cities? 8 How many roads connect Beni?

A 23 B 42 C 28 D 15